සියළුම හිමිකම් ඇවිරිණි. / All Right Reserved

The only and best ICT class in Sri Lanka where 100% students passed.

JUDE KATHURUSINGHA

BSc in Artificial Intelligence & Data Science (Reading)AD.Diploma In Information Communication Technology Sp. Business IT -MDIS University (Singapore) Diploma B.Sc. Network Engineering (SLIIT)
Former Lecture in Private Campus A/L ICT Teacher in Leading International School C.E.O in Istharam Online Education Founder of ICT with Kathurusingha

General Certificate of Education (Adv. Level)
අධ්‍යන පොදු සහතික පත්‍ර (උසස් පෙළ) විභාගය,

MCQ Model Paper 8
බහුවරණ ආදර්ශ පත්‍රය 8

Information & Communication Technology
තොරතුරු හා සන්නිවේදන තාක්ෂණය

20 | **E** | **I**

Two Hours
පැය දෙකයි

1. What is not true about Flat File Systems?
(1). Maintaining all data related to a particular subject in one file.
(2). the possibility of blank data being deposited at certain points during data entry.
(3). the manipulation of data in the data file may also affect other data.
(4). lack of ability to handle data efficiently.
(5). Many organizations today use flat data file systems.

2. Below is a format of a data file. What data file type does it belong to?

Emp_No	Name	Department	Basic_ Salary	Overtime
0001	Kamal	Account	25000	
0002	Sugath	Sales	18500	
0001	Kamal	Account		5
0002	Sugath	Sales		3

(1). Relational Database
(2). Flat file Database System
(3). Hierarchical Database System
(4). Object Relational Database System
(5). Network Database System

3. Which of the following is not an advantage of flat file database System?
(1). Being very easy to understand.
(2). Ease of creation.
(3) Ability to process even a person without high knowledge.
(4). Being more suitable for small data files.
(5). the ability to analyze data very easily

4. Which is not a disadvantage of Flat File Database system?
(1). Time consuming in searching data from 1 file.
(2). Data file efficiency decreases as data size increases.
(3).Repeated inclusion of the same data.
(4). Lack of integration (Redundancy) of data.
(5). which can be created even by someone who does not have a good understanding of data files.

Jude Kathurusingha

සියලුම හිමිකම් ඇවිරිණි. / All Right Reserved

5. Consider the following data file structure.

Stu_No	Name
234	Supun
235	Kasun
236	Pradeep
237	Kelum

Stu_No	Amount
234	1500
235	2000
236	1500
237	3500

Stu_No	Certificate_no
234	1001
235	1002
236	1003
237	1004

Stu_No	Name
234	English
235	Computer
236	Computer
237	English

What type of data file is represented by the above data file Structure?

(1). Relational Database (2). Flat file Database System
(3). Hierarchical Database System (4), Object relational database system
(5). Network Database System

6. Which is not a content language among languages that handle database management systems?

(1). Data Definition Language (2). Data Manipulation Language
(3). Data Query Language (4). Data Control Language
(5). Programming Language

7. Those who introduced the linked data files are correctly identified

(1). E.F. Code - 1970 (2). Tim Burners-Lee (3). Robert Kahn
(4). Vinton Cerf (5). From Nummaan

Jude Kathurusingha

සියලුම හිමිකම් ඇවිරිණි. / All Right Reserved

8. the most appropriate data file type for storing designs generated through computer aided design is,

(1). Relational Database (2). Flat file Database System
(3). Hierarchical Database System (4). Object relational database system
(5). Network Database System

9. Note the following points regarding relational database.

A. Linked data files provide the ability to easily connect data from one table to Data from another table.
B. Linked data files to efficiently handle large amounts of data The possibility exists.
C. Data security is available. Data secrets that each user can access in the data file There is the ability to control using verses.

Among the above statements regarding linked data files

(1). Only A (2). Only B (3). Only C (4). A and B only. (5). all A, B, C are correct.

10. Which of the following are the most commonly used data file Formats today?

(1). Relational Database (2). Flat file Database System
(3). Hierarchical Database System (4). Network Database System
(5). none of the above.

11. Which of the data formats represents the parent-Child relationship?

(1). Relational Database (2). Flat file Database System
(3). Hierarchical Database System (4). Object relational database system
(5). Network database system

12. ANSI SPARK format does not belong to 03 data levels

(1) Physical level (2) Conceptual level (3). logical level
(4) Level of analysis (5). none of the above.

13. Consider the following statements regarding relational databases.

A. the Structured format of a linked data file is made up of rows and columns.
B. Ability to use primary key to uniquely identify rows in a table.
C. Primary Keys and Foreign Keys to connect data between two tables

Which of the above statements is true?

(1). A only. (2). B only. (3). C only. (4). A and B only. (5). A, B, C are all correct.

14. An unexpected function of Data Normalization is,

(1) To avoid unnecessary consumption of data storage space.
(2). Removal of data revision anomalies (Update Anomaly).
(3). Removal of data entry anomalies (Insertion Anomaly).
(4). Deletion Anomaly.
(5). Maintaining separate data in tables.

Jude Kathurusingha

සියලුම හිමිකම් ඇවිරිණි. / All Right Reserved

15. Which statement correctly describes Data Warehousing?

(1). A data system established primarily for data analysis, querying, etc. without prioritizing the transaction processing process. Especially based on historical data Information will be provided.

(2). General data maintained facilitating the processing of transactions

(3). Data files with only query capability are called by this name.

(4). Organizations owned by servers that store data are called these nine.

(5). none of the above.

16. Following are some statements regarding Object Relational Database Shown

A. Object Relational Database Data files such as 3D, communication Is more suitable for

B. Object Link Formats there is a structural similarity between the link data file

C. Formats. Used to maintain information related to computer-aided design.

Which of the above statements is correct?

(1). Only A. (2). B only. (3). C only. (4). A and B only. (5). A, B, C are all correct.

17. The name used to identify a data in a single row (Row) of a relational data file (Relational Database) is,

(1). Tuple (2). Attribute (3). Column (4). Keys (5). Primary Key

18. Which of the following statements about relational databases is not correct? Select the statement.

(1). A table's primary key can prevent repeated entries of the Same data.

(2). A field that is made Primary Key will not accept empty data.

(3). the identity of the data in the data file can be preserved by applying a primary key.

(4). A primary key in one table can become a foreign key in another table.

(5). Empty data may exist in a primary key field in certain cases.

19. Fields that can be selected as the primary key for a relational database Used to refer to fields when multiple exist, The name is

(1). Primary Key (2). Foreign Key (3). Alternate key

(4). Composite Key (5). Candidate Key

20. A relational database table has several fields that can be selected as the primary key. After one field is selected as the primary key, the remaining field is named.

(I). Primary key (2). Foreign Key (3). Alternate Key

(4). Composite Key (5). Candidate Key

21. Regarding database management software (Database Management System), the following statements

A - Computers to create data files, store their data, and analyze them.

Database Management Systems (DBMS) are used

Jude Kathurusingha

සියලුම හිමිකම් ඇවිරිණි. / All Right Reserved

B - SQL is an example of data file management software.
C - Forms, Queries, Reports, Table are not considered existing facilities of data file management systems.

Which of the above statements is correct?

(1). Only A (2). B only. (3). B only. (4). A and B only. (5). A. B, C are all correct.

22. Which statement about data queries is incorrect?

(1). can be Use queries to analyze data stored in data files
(2). It is possible to create data queries (query) as required by the user.
(3), Based on an instruction given to a data file, queries have the ability to search for data that matches that instruction and refer it to the file.
(4). every data file management system has query capability.
(5) Query capability is not an integral part of data file management systems.

23. Select the incorrect answer regarding the Sub Query.

(1). Sub queries are another query contained within the main Query.
(2). Sub queries are executed first, followed by the main query.
(3). Not every query can have a sub query.
(4). the main query is executed before the sub queries are executed.
(5). Sub queries can be used for one table or two tables.

24. A rectangle symbol is used in an ER model.

(1). to represent the Entity (2). to represent attributes
(3). to represent derived properties (4). to represent relations
(5). to represent the frequency of connections (Cardinality).

25. A physical connection model uses the circle symbol

(1). to represent the Entity (2). to represent attributes
(3). to represent derived properties (4). to represent relations
(5). to represent the frequency of connections (Cardinality).

26. Dotted circles are used in a physical correlation model.

(1). to represent the entity (2). to represent attributes
(3). to represent derived properties (4). to represent relations
(5). to represent the frequency of relations (Cardinality).

27, two lines of an ER Diagram

(1). to represent the Week Entity (2). to represent attributes
(3). to represent derived properties (4). to represent relations
(5). to represent Multi values

Jude Kathurusingha

සියලුම හිමිකම් ඇවිරිණි. / All Right Reserved

Study the physical conjunction model below and answer question numbers 28 To 29.

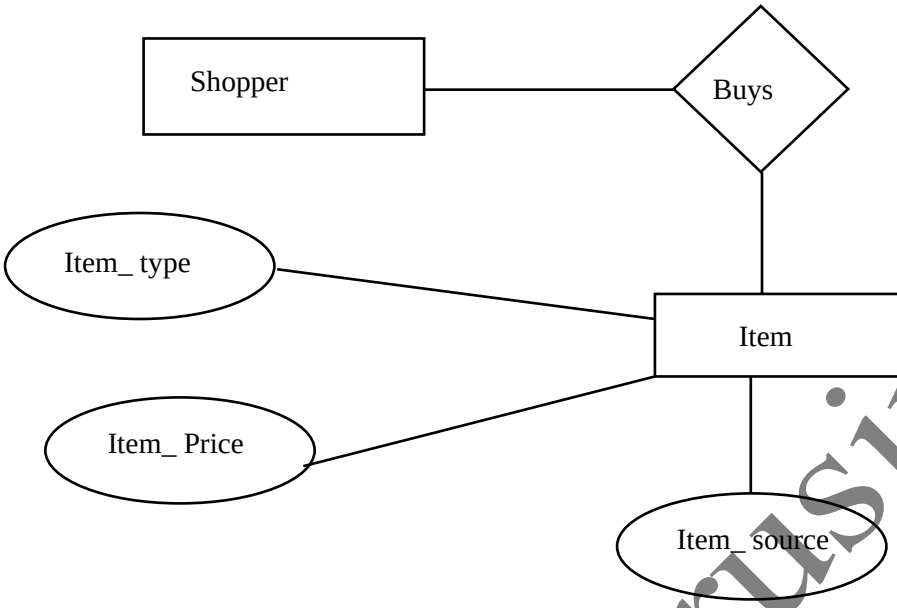

28. Choose the answer that correctly states the objects in the above object connection model.

(1). Shopper, etc.
(2). item_type, item_price, item_source
(3). Buys
(4). Shopper
(5). ltem_source

29. The relationship between entities in the above entity link model is correctly named Answer Select.

(1). Shopper, Item
(2). item_type, item_price, item_source
(3). Buys
(4). Shopper
(5). ltem_source

30. Select the answer that correctly expresses a function performed by the first function

(1). Remove attributes with Multi value and transfer that data to another table
(2). Attributes with single data are converted to multi value.
(3). Elimination of sectoral dependence.
(4). Eliminating transitive dependency.
(5). Removal of sectoral dependency.

31. Consider the tables given below.

Employee (Emp_No, Name, Project_ID, Project_Name)
Choose the incorrect statement related to the table above.

Jude Kathurusingha

සියලුම හිමිකම් ඇවිරිණි. / All Right Reserved

(1). the above table is a table that has not undergone the second normalization.
(2). this table has a partial dependency.
(3), when data is entered into the above cell, the same data may be entered repeatedly.
(4). The Name attribute depends on the employee Number.
(5). this table is a second normalized table.

32. Consider the following statements.
A. A first normalized table can be used for the second Normalization.
B. The second normalization is to remove partial dependencies.
C. A table that has not undergone the first normalization can be used For the second normalization.

Among the above statements, the correct statement related to the second standardization is expressed as,
(1). A, C only. (2). B only. (3) B only. (4). A and B only. (5). A, B, C are all correct.

33. A data file has to be converted to the third format as given below In case of any
(1). In case of partial dependencies (2). When Transitive Dependencies exist
(3). when the data is repeated (4). not have a primary key,
(5). none of the above.

34. Consider the following statements.
A. At least two fields must be used to identify data in the table.
B. To use only one field to identify duplicate records in the table
C. There are repeated entries in the table.
Among the above statements, the reasons why a table needs to be subjected to second normalization are correctly stated,
(1). A only. (2). B only. (3). C only. (4). A and B only. (5) A, B, C are all correct.

35. Study the table below.

StNo	Name	Pdate	Fees
01	Saman	01/01/2021	1500
02	Kamla	01/01/2021	1500
03	Saman	05/02/2021	1500
04	Kamal	06/02/2021	1500

Choose the correct answer regarding this table.
(1). the above table has not undergone First Normalization.
(2). the above table has been subjected to Second Normalization.
(3). the above table has undergone First Normalization and Second Normalization.
(4). this table is not subjected to first, second and third normalization.
(5). Subjected to third normalization only.

Jude Kathurusingha

සියලුම හිමිකම් ඇවිරිණි. / All Right Reserved

36. In the following table relation, unit code is a primary key. Which of the following statements about the table is correct?

Select the statement.

Unit code	Unit Name	Course code	Course name
UG45783	Advance Database	COMP2009	Computing
UG45832	Network Systems	COMP2009	Computing
UG45734	Operating System	COMP2009	Computing
UG45951	Project	BUS22009	Business & computing

(1). the above table is a table with first normalization, second normalization, third Normalization.
(2). the above table is third normalized.
(3). this table has a transitive dependency.
(4). CourseCode, CourseName fields are first modified by referencing them to another table
(5). The UnitName field does not depend on the UnitCode field.

37. Choose the statements that are not correct regarding the table below.

EMpno	Name	Address	TelNo
001	Kumara	Kandy	0715610274,0812222265
002	Herath	Colombo	0115658596,0777333555

(1). the above table is a table with revision variances.
(2). since there are two numbers in the column indicating the phone number, they should be added to the first account
(3). employee number can be used as primary key.
(4). in this table there is possibility to change their names using employee number.
(5). this table is the first normalized table.

38. Note the points given below.

A. Data in one [Entity] is represented in relational models such as relationships
With data in another entity.
B. One to One, Many to Many Relationship Objects
Represented in relational models.
C. Foreign Key is used to establish the relationship between objects.

Correct statements about the relationship between entities.

(1). Only A. (2). B only. (3). C only. (4). A and B only. (5) A. B, C are all correct.

Jude Kathurusingha

සියලුම හිමිකම් ඇවිරිණි. / All Right Reserved

39. Consider the following 5QL advice on the creation of relational tables.

```
CREATE TABLE student(
Stno Int(5),
Name varcher(20) not null,
primary key (Stno)
)
```

Choose the statements that are not correct regarding the above table.

(1). the name of the table created by the above SQL instruction coding is Student.
(2). Column with Student Number (Stno) cannot enter blank data.
(3). Student Number (Stno) is used as primary key.
(4).You can enter the same number repeatedly in the Student Number (Stno) column.
(5). the name Sandun Ekanayaka can be entered as a student name.

Answer question No 40 to 42 using the physical conjunction form below.

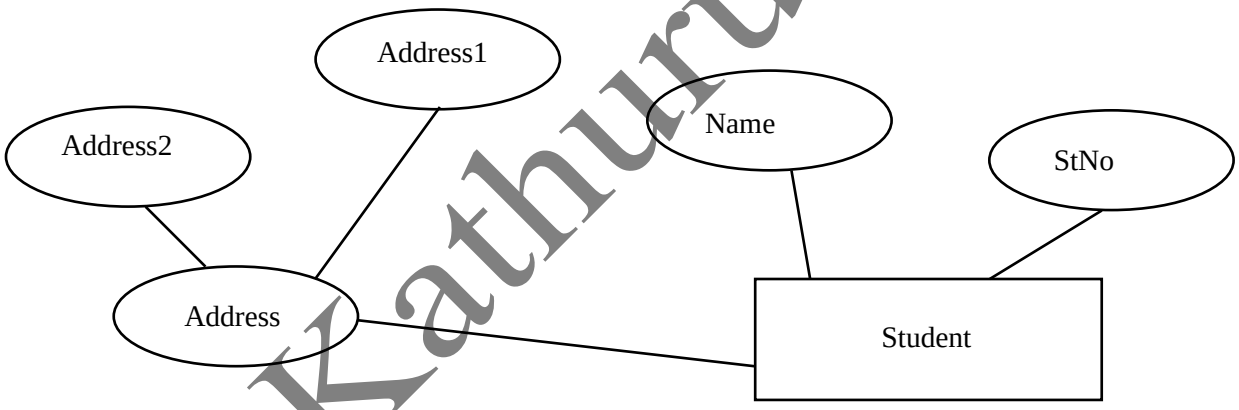

40. Select the correct answer regarding the StNo field in the above ER note.

(1). StNo is a primary key. (2). StNo is a foreign key.
(3). StNo is a normal sub-characteristic. (4). The StNo field is a combined attribute.
(5). StNo is a generation field.

41. Select the correct answer regarding the Address sub-characteristic in the above ER record.

(1). Address is a Composite Attribute. (2). Address is a Multivalue Attribute.
(3). Address is a Derived Attribute. (4). Address is a Descriptive Attribute.
(5). none of the above.

42. Convert the above physical connection model to a relational data structure (Relational Schema). Choose the correct answer,

(1), Student(StNo, Name, Address1) (2). Student(StNo, Name, Address1)
(3). Student(StNo, Name, Address1, Address2) (4). Student(StNo, Name, Address2)

Jude Kathurusingha

සියලුම හිමිකම් ඇවිරිණි. / All Right Reserved

(5). Student(StNo, Name, Address2)

Answer questions number 43 to 44 using the physical relationship model Below.

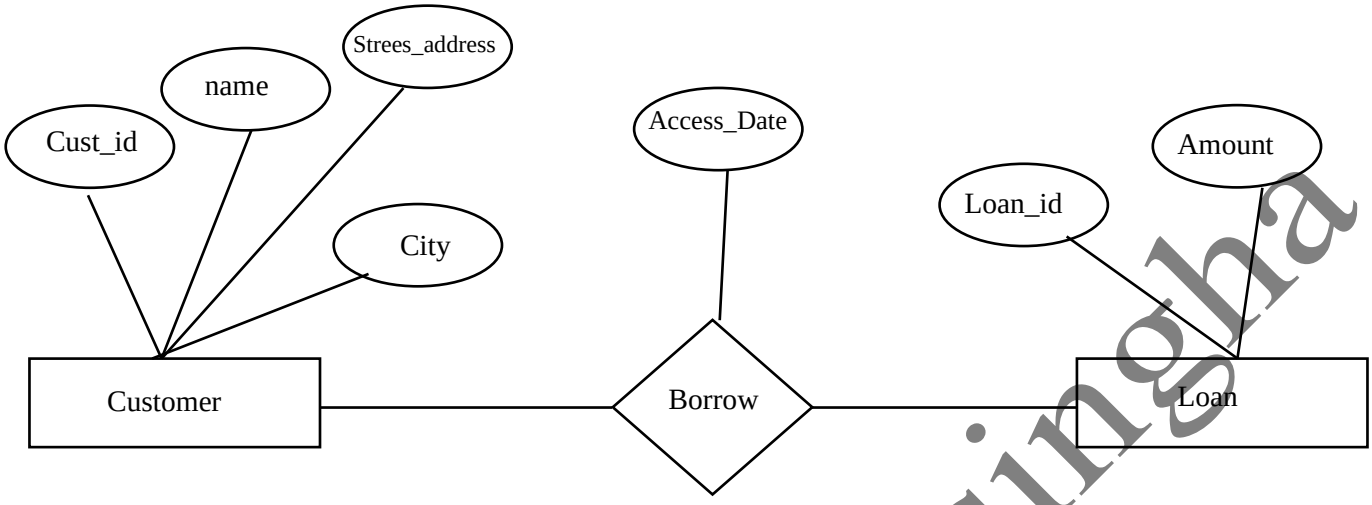

43, Convert the above geospatial relation to the known particle (Relational Schema) and select the answer

(1). customer(cust_id,name,street_address,city) loan(loan_id,amount) borrow loan id,cust_id,access_date)

(2). customer(cust_id,name,street_address) loan(loan_id,amount)

(3). customer(cust_id,name,street_address,city) loan(amount) borrow(loan_id, Amount)

(4) customer(name,street address,city) loan(loan_id,Amount)

(5) customer(cust_id,name,street_address,city) loan(loan_id) borrow(loan_id, Amount)

44. What can be identified as the descriptive attribute of the physical relationship Model above?

(1). Access_Date (2). City (3). Loan_ld (4). Barrow (5). Loan

45. If a table of data does not contain the same data repeatedly and does not contain multiple data in one field, Such a table,

(1). Considered as a first normalized table. (2). Considered as a second normalized table.

(3). A fourth normalized table is considered. (4). Not considered as a fifth normalized table.

(5). First, second, third are considered as normalized table.

46. Which commands in SQL are used to create, delete, modify the structure Of data files?

(1). Data Manipulation Language (2). Data Definition Language

(3), Query (4). Forms

(5). Report

47. The following Sql code belongs to, Create table employee(name varcher(20))

(1). Data Manipulation Language (2). Data Definition Language

(3). Query (4). Forms

Jude Kathurusingha

සියලුම හිමිකම් ඇවිරිණි. / All Right Reserved

(5). Report

Consider the table below.

Emp_No	Name	Department	Salary
1	Kamal	Account	27500
2	Sugath	Personal	35000
3	Bandara	Account	17800
4	Mangala	Personal	48500
5	Nirmal	personal	32500

48. What is the correct Sql instruction used to display the name and salary of the person related to employee no.1?

(1). SELECT Name,Salary FROM Employee
(2), SELECT * FROM Employee
(3). SELECT * FROM Employee WHERE Emp_No = "1"
(4). SELECT Name,Salary
(5). SELECT Name, Salary FROM Employee WHERE Emp_No = "1"

49. Correct SQL related to extracting all the data of employees whose salary is above Rs.30000 from the above table What is counseling?

(1). SELECT *FROM Employee WHERE Salary >30000
(2). SELECT * FROM Employee WHERE Salary <30000
(3). SELECT * FROM Employee WHERE Salary >= 30000
(4). SELECT FROM Employee Salary >30000
(5). SELECT FROM Employee WHERE Salary 30000

50. What is the SQL instruction for extracting only the data of employees in the accounting department from the above table?

(1). SELECT * FROM Employee WHERE Department = "Account'
(2). SELECT * FROM Employee WHERE Department <> 'Account'
(3). SELECT * FROM Employee WHERE Department <= 'Account'
(4). SELECT Employee WHERE Account = 'Department'
(5). SELECT Employee WHERE FROM Department = 'Account'

51. What is the correct SQL advice related to extracting the salary of the employees who work in the above account department and get salary more than Rs. 25000?
What is the correct SQL advice to quote?

(1). SELECT * FROM Employee WHERE Department = 'Account'
(2), SELECT • FROM Employee WHERE Department = 'Account' or Salary > 25000.
(3). SELECT * FROM Employee WHERE Department = 'Account and Salary > 25000
(4). SELECT * FROM Employee WHERE Department = 'Account' and Salary < 25000
(5). SELECT * FROM Employee WHERE Department = 'Account', 5alary > 25000

Jude Kathurusingha

සියලුම හිමිකම් ඇවිරිණි. / All Right Reserved

52. What is the correct 5QL query to remove employee number 1 data from the above table?
(1). DELETE * FROM Employee WHERE Emp_No = '1
(2). DELETE * FROM Employee WHERE Emp_No <> '1'
(3). DELETE From Employee WHERE Emp_No = '1'
(4). DELETE From Employee WHERE Emp_No <> '1'
(5). DELETE Employee WHERE Emp_No = '1'

53. What is the correct 5QL advice for increasing the salary of employee No. 1 by Rs.5000?
(1) UPDATE Employee 5ET Salary = Salary + 5000 WHERE Emp_No = '1'
(2), UPDATE Employee Salary = 5alary + 5000 WHERE Emp_No = !1'
(3), UPDATE Employee 5ET Salary = '5000' WHERE Emp_No = '1'
{4), UPDATE Employee SET Salary = Salary + 5000 WHERE = '1'
(5). UPDATE SET 5alary = Salary + 5000 WHERE Emp No = '1' FROM Employee

54. What is the correct SQL statement to display the sum of salaries of all employees?
(1). SELECT SUM(Salary) As Salary Employee
(3), SELECT ALL SUM(Salary) FROM Employee
(2). SELECT SUM(Salary) Employee
(4). SELECT SUM(Salary) FROM Employee
(5)' SELECT FROM Employee SUM(Salary)

55. SQL Consulting related to sum total of salaries of employees in accounts department
(1). SELECT ALL SUM(Salary) FROM Employee Department = "Account
(2). SELECT SUM(5alary) Employee WHERE Departmerit = 'Account'
(3). SELECT SUM(Salary) FROM Employee WHERE Department = "Account"
(4). SELECT SUM(Salary) AS Salary Employee Department = 'Account'
(5). SELECT FROM Employee SUM(Salary) Department = "Account"

56. Consider the relation given below. Student(St_Id, Name, Course)
What is The correct SQL code can be used according to the language rules to enter data into the above link
(1). INSERT INTO Student (St_Id, Name, Course) VAL(1, 'Perera', 'Computer')
(2). INSERT INTO Student(St_Id, Name, Course) VALUES (1, 'Perera', 'Computer')
(3). INSERT Student(St_Id, Name, Course) VALUES (1, 'Perera', Computer)
(4), ADD INTO Student(St_Id, Name, Course) VALUES (1, Perera','Computer)
(5). INSERT Student (St_Id, Name, Course) VALUES (1,Perera,Computer)

Jude Kathurusingha

සියලුම හිමිකම් ඇවිරිණි. / All Right Reserved

Use the Employee table given below to answer question numbers 57 to 58.

Emp_No	Name	Department	Position	Salary
1	Kamal	Account	Clark	27500
2	Sugath	Personal	Manager	35000
3	Bandara	Account	Sales Man	17800
4	Mangala	Personal	Sales Man	48500
5	Nirmala	Personal	Clark	32500

57- Among the data in the above table, which code is most suitable for querying the data of the employees who receive salary more than Manager's salary?

(1). SELECT FROM Employee WHERE Salary >(SELECT Salary FROM Employee WHERE Position = 'Manager')

(2). SELECT * FROM Employee WHERE Salary >(SELECT salary FROM Employee WHERE Position - 'Manager')

(3) SELECT * FROM Employee WHERE Salary >27500

(4), SELECT * FROM Employee WHERE Salary = SELECT Salary FROM Employee WHERE Position = 'Manager')

(5). SELECT * FROM Employee WHERE Salary >{SELECT Salary FROM Employee WHERE Position = 'Manager')

58. Which query is best to get the sum of the salaries of the employees in the above table?

(1). SELECT SUM(Salary) FROM Employee

(2). SELECT SUM(Salary) FROM Employee

(3). SELECT TOTAL(Salary) FROM Employee

(4). SELECT SUM(Salary) AS FROM Employee

(5). SELECT TOTAL(Salary) Employee

Use the following IR-Diagram to answer question numbers 59 to 63.

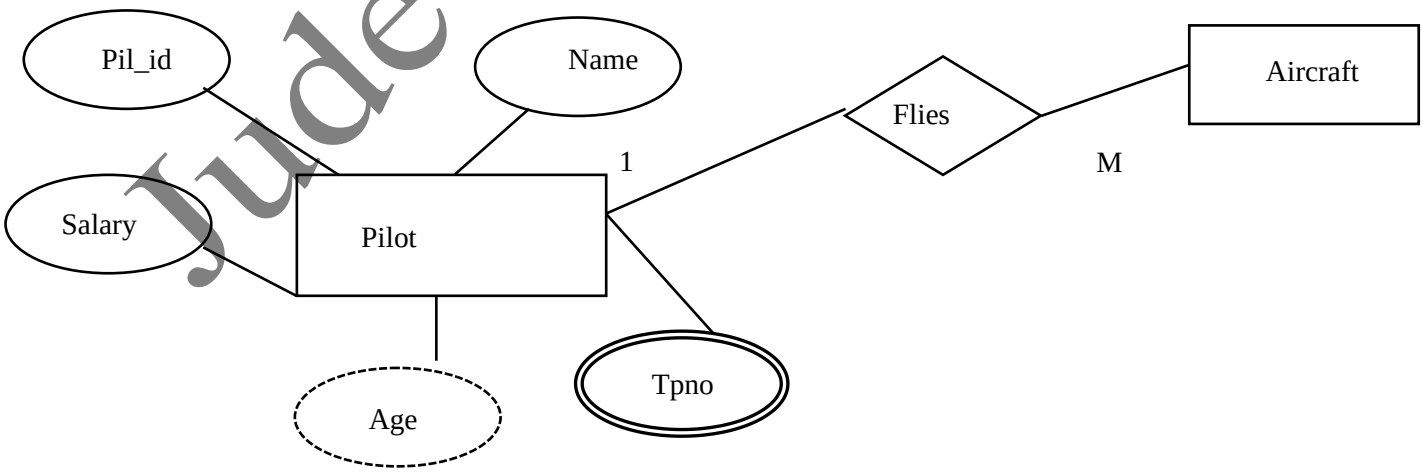

Jude Kathurusingha

සියලුම හිමිකම් ඇවිරිණි. / All Right Reserved

59. In the mother object relation model, the physical properties are,
(1). pilot, Aircraft. (2). Pilot only. (3). Aircraft only.
(4). Flies only. (5). Pilot, Flies, Aircraft

60. Derived Attribute (Derived Attribute) in this object relation model
(1). Pil_ Id (2) Age (3), Name (4). Salary (5). TPNO

61. The relationship in the above object relation model is named,
(1). Pil_ Id (2). Age (3). Name (4). Salary (5). Flies

62. The feature designed to store multiple data is,
(1). Pil _Id (2). Age (3). Name (4). Salary (5). TPNo

63. The relationship count (Cardinality) in the above object relation model is,
(1), that - that (One to One) (2). Many to Many
(3). One to Many (4). One – Many to Many
(5). none of the above.

Consider the following statement and answer questions 64 to 65. An educational institution intends to maintain the information of the students who register in their institution and the information related to the class fees paid by them in the computer where the student number, name, address as well as the date of payment of class fees and the fee are planned to be included.

64. If a link data file format is created in relation to the above statement, which answer Correctly states the entity that should exist there?
(1). Student iy Fees (2). Student Name of Student
(3). Class iy Fees (4). Student_No, Suderit_Name & Address
(5). Student Register

65. In relation to the above statement, if an Entity Relationship Diagram is created only for students' data, what is the most suitable model for that?

01.
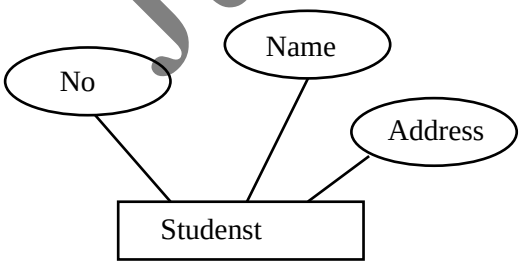

02.
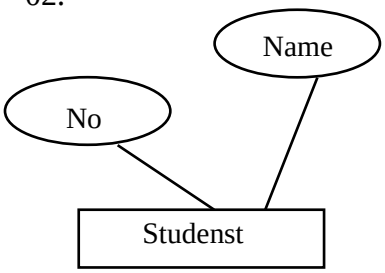

03.
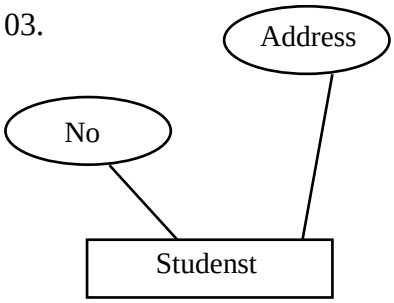

Jude Kathurusingha

සියලුම හිමිකම් ඇවිරිණි. / All Right Reserved

04.

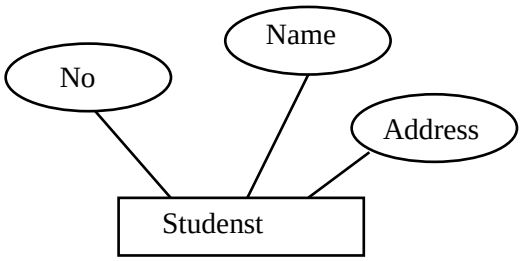

05.

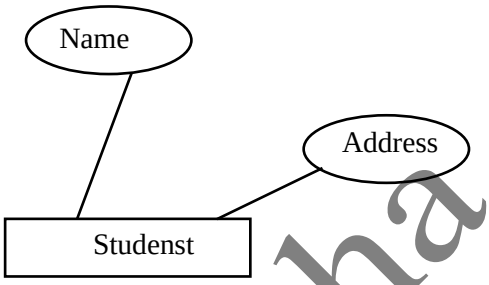

66 If two objects called Student and Fees were created in the object relation model created in Relation to the above statement, what would be the type of relationship between them?

(1), One to One (2).Many to Many (3). One to Many
(4). Student and class fee relationship (5). None of the above

67. A separate fineable unit of data in a physical connection diagram is called

(1) Column (2). Entity (3). attribute (4). relation (5). Field

68. When several fields that can be used as a primary key of a table are taken together, It is called,

(1). Composite key. (2). Alternate key. (3). Candidate Key.
(4). Foreign Key. (5). none of the above.

69. Most commonly used databases for database software in use today (Database) type can be displayed.

(1). Flat File system (2). Hierarchy (3). Relational File System
(4). Object Relational File System (5). Network

70. What is used to graphically represent the logical structure of a data file?

(1) ER Diagram (2) Database Diagram (3). Data Flow Diagram
(4) Activity Diagram (5) Network Data

71, note the following remarks concerning the forms of the conjunctive Form.

A. physical relation model is a table on a relation
B. It is possible to have attributes for a relation.
C. attributes cannot exist for a relationship.

Which of the above statements is most accurate regarding an operating system?

(1). A only. (2). B only (3). C only (4). A and C only. (5). A and B only.

Jude Kathurusingha

සියලුම හිමිකම් ඇවිරිණි. / All Right Reserved

72. What is the correct suffixes about the relationships between objects in the object relation model shown below?

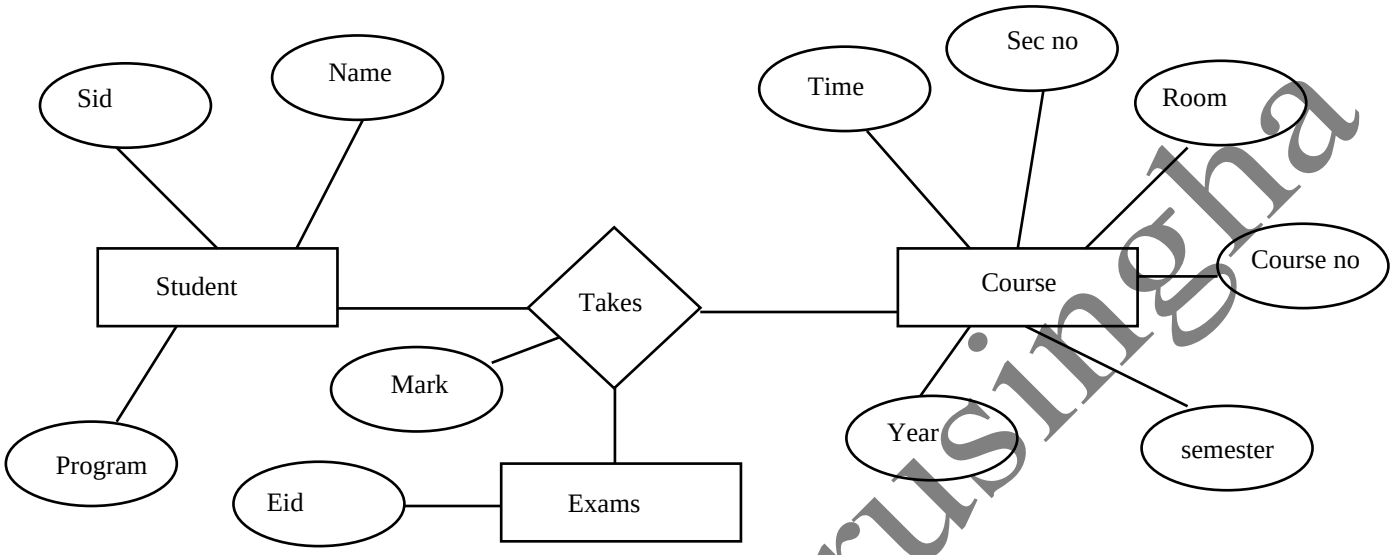

(1). Ternary relationship also exists. (2). A binary relationship exists.
(3). a unary relationship exists. (4). There is a Binary relationship and a Unary relationship.
(5). Binary relationship and Ternary relationship exist.

73. What type of relationship does

the object relation diagram below show?

(1). A ternary relationship exists.
(2). A binary relationship exists.
(3). a unary relationship exists.
(4). There is a Binary relationship and a Unary relationship.
(5). There is a binary relationship and a ternary relationship.

Consider the object relation model below and answer questions 74 to 75.

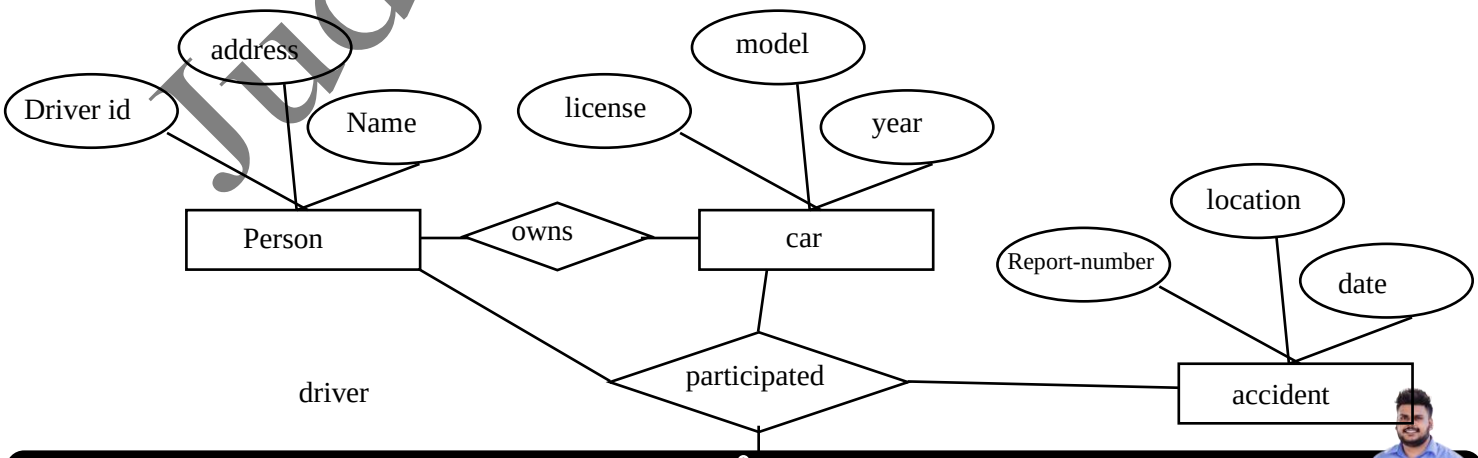

Jude Kathurusingha

සියලුම හිමිකම් ඇවිරිණි. / All Right Reserved

Damage-amount

74. What is the table structure when the above object relation model is converted to tables?

(1). person(driver_id,name,address) car(license,year, model) accident(report_number,date,location) participated(driver_id, license,report_number)

(2). car(license,year,model) accident(report_number,date,location) participated (driver_id, license,report_number,damage_amount)

(3), person(driver_id,name,address) accident(report_number,date,location) participated(driver_id,license, report_number,damage_amount)

(4), person(driver_id,name, address) car(license,year, model) accident(report_number,date,location) participated(driver_id, license, report_number,damage_amount)

(5), person(driver_id,name, address) car(license,year,model) accident(report_number,date,location)

75. The primary keys of the tables being created for the model are shown correctly What is the physical link answer above?

(1). driver_id, license, report_number

(2). driver_id, license, report_number, rate

(3). driver_id, license, report_number, location

(4), driver_id, license, report_number, model

(5), cdriver_id, license, report_number, damage_amount

76. Database Management Software (DBMS) among the following computer programs what is not?

(1). Dbase III Plus (2). Oracle (3). Access (4). My SQL (5). Python

77. What type of relationship is shown by the physical connection diagram below?

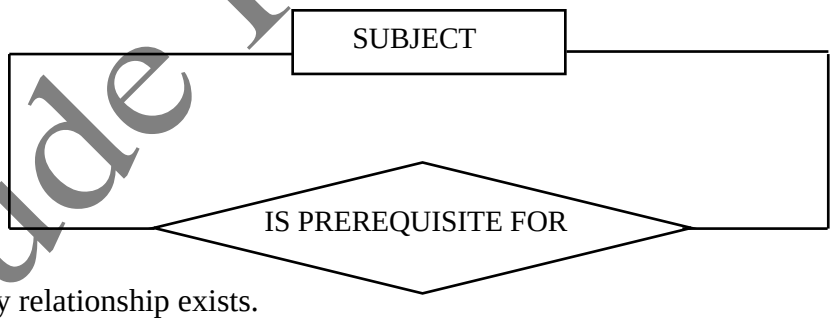

(1). A ternary relationship exists.

(2). A binary relationship exists.

(3). A unary relationship exists.

{4). There is a Binary relationship and a Unary relationship.

(5). There is a binary relationship and a ternary relationship.

Jude Kathurusingha

සියලුම හිමිකම් ඇවිරිණි. / All Right Reserved

78 What type of relationships shown in the physical connection diagram below?

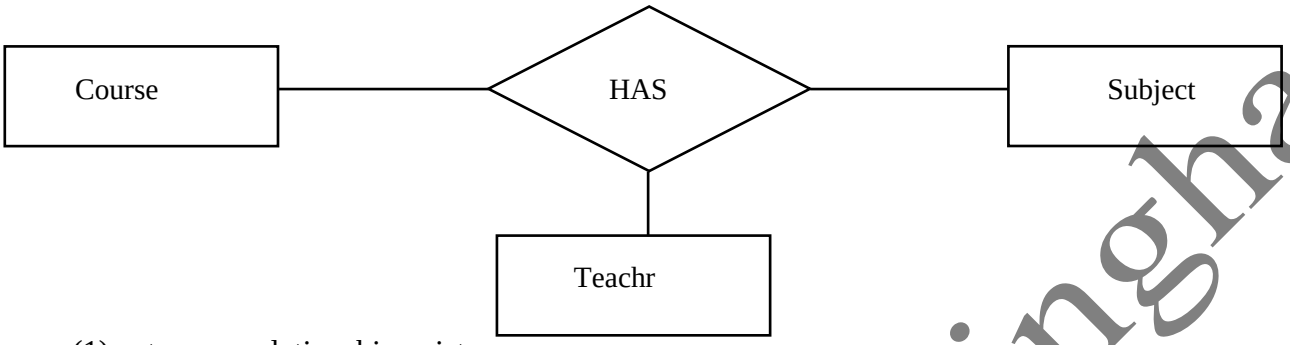

(1). a ternary relationship exists.
(2). A binary relationship exists.
(3). A unary relationship exists.
(4). Binary relationship and Unary relationship exist,
(5). Binary relationship and Ternary relationship exist.

Below is an SQL encoding. Use it to answer questions from 79 to 83.

```
CREATE TABLE Orders
O_Id int NOT NULL,
OrderNo int NOT NULL,
P_Id int
PRIMARY KEY (0_id),
FOREIGN KEY (P_Id) REFERENCES Persons(P__ld)
```

79. What is the correct answer for the names of the tables that can be identified by the above codes?

(1), orders and O__id (2), Persons (3), Orders and Parsons.
(4). OrderNo (5). O__id

80. According to the above encoding, the primary key of the Orders table can be identified as,

(1). Persons (2). P_Id (3). OderNo (4). int (5). O_id

81. The above encoding creates a foreign key and the name of the table where the foreign key present is,

(1), orders (2). Person (3). Oders to Persons: (4). OrderNo (5). O_id

82. The instructions in the above code include,

(1), DDL (2). DML (3). SQLD.
(4). Database Management System (5). Python

Jude Kathurusingha

සියලුම හිමිකම් ඇවිරිණි. / All Right Reserved

83. According to the above encodings the primary key and foreign key are respectively given answer is,

(1) O_ID Persons (2). Persons con P_id (3). Oders and Persons
(4). O_id and P_Id (5). oderNo p_id

84. Study the chart below and write the proper names to then places marked A, B, C, D.

CFirstName	CLastName	CPhone	CZipcode
Asanka	Perera	0171231231	92501

A ⟶ **Customers**
B ⟶
C ⟶

(1). A-Scheme name, B-Attribute, C-Tuple
(3). A-Tuple, B-Scheme name, C-Attribute
(2). A- Attribute, B- Scheme name, C-Tuple
(4). A-Tuple, B-Attribute, C-Scheme name
(5), A-Attribute, B- Tuple, C-Scheme name

For question numbers 85 to 91, use the table below.

Emp_No	Name	Address	Section	Position	Gender	Salary
1	Kamal	Kandy	Account	Manager	Male	32000
2	Amali	Colombo	Sales	Clark	Female	25000
3	Perera	Kandy	Account	Clark	Male	45000
4	Herath	Colombo	Account	Sales Man	Male	27500
5	Thilaka	Kandy	Sales	Sales Man	Female	19850
6	Niwanthi	Kandy	Account	Computer Op	Female	29500
7	Fernando	Mathara	Account	Supervisor	Male	47500

85. Which is the correct code that can be used to enter the details of the employee given below in the above table?

Employee Number – 8, Name – Bandara, Address – Kandy, Department – Account, Designation
Clark,
Gender – Male, Salary 35000

(1) INSERT INTO Employee(Emp No, Name, Address,Section, Position,Gender, Salary) values
{8,'Bandara', 'Kandy','Account','Clark','Male',35000)

(2). INSERT INTO Employee(Emp_No,Name Address,Section, Position,Gender, Salary) val
[8] 'Bandara' 'Kandy','Account','Clark','Male',35000}

Jude Kathurusingha

සියලුම හිමිකම් ඇවිරිණි. / All Right Reserved

(3) INSERT INTO(Emp_no, Name, Address, Section, Position, Gender,Salary) values
(8_'Bandara','Kandy','Account','Clark','Mals')
(4), \NSERT INTO Employee(Name,Address,Section.Position,5alary) values
'Airport','Kandy','Account','Clark','Male',35000)
(5), (NSERT INTO Employee(Emp_No,Address,5ection,Position,Gender: Salary) record
(8,'Airport','Kandy','Account','Clark','Male',35000)

86. The salary of all the employees in the accounts department is Rs. 2500/- with correct SOL code relevant to increase Choose the answer.
(1), UPDATE Employee = 5alary + 2500 WHERE Section = 'Account
(2), UPDATE Employee 5ET = 5alary + 2500
(3). UPDATE Employee SET – Salary + 2500 WHERE Section <> 'Account'
(4), UPDATE Errmployee SET = Salary + 2500 WHERE Section = "Account"
(5), UPDATE Employee 5ET = 2500 WHERE Section = "Account

87. Choose the answer with Correct SQL code to query the data of employees who are paid more than the manager's salary
(1). SELECT * FROM Employee WHERE Salary > (SELECT Salary FROM Employee WHERE Position = 'Manager')
(2). SELECT * FROM Employee WHERE Salary > 32000
(3), SELECT * FROM Employee WHERE Salary > (SELECT FROM Employee WHERE Position = 'Manager')
(4). SELECT * FROM Employee WHERE Salary > (SELECT Salary FROM Employee Salary = 'Manager')
(5). SELECT * FROM Employee WHERE Salary > (SELECT Salary FROM Employee WHERE Salary > 'Manager')

88. What code should be used to get the following output from the Employee table above?

Section	SUM(Salary)
Account	134000
Personal	47500
Sales	44850

(1), SELECT Section,SUM(Salary) FROM Employee GROUP BY Section
(2), SELECT * Section,SUM(Salary) FROM Employee GROUP BY Section
(3). SELECT * FROM Employee GROUP BY Sectlon
(4) SELECT Section,SUM(Salary) FROM Employee
(5). SELECT Section,SUM(Salary) FROM Employee SORT BY Section

89. Select the answer which correctly indicates the number of Filed Names in the above table.
(1).8 (2). 7 (3). 5 (4). 3 (5). 2

Jude Kathurusingha

සියලුම හිමිකම් ඇවිරිණි. / All Right Reserved

90. Select the answer that correctly indicates the number of records in the above table.

(1). 8 (2). 7 (3). 5 (4). 3 (5). 2

91. The salaries of the employees in the above table are arranged in order from the lowest salary to the highest Salary amount. What is the correct code used to look up?

(1). SELECT * FROM Employee ORDER BY 5alary
(2). SELECT * FROM Employee ASCENDING BY Salary
(3). SELECT * FROM Employee DESCENDING BY Salary
(4). SELECT * FROM Employee ORDER BY Salary DESC
(5). SELECT FROM Employee ORDER BY Emp_No

92. Consider the following statement,

A. The first standardization is done to prevent the same data from being entered repeatedly in a table, and to prevent multiple data (Multi values) in one field.
B. At the end of the first standardization, the data in a single table is separated into two tables.
C. By the Foreign Key between the two data files generated after the first calibration A relationship is formed. Of the above statements, which is the most accurate about the first approximation.

(1). A only (2). A and B only. (3). C only
(4). A and B only (5). A, B, C all are correct

93 The Parent-Child Relationship is represented in the following Data file types:

(1) Network (2). Relational (3). Object Relational
(4), Flat File System (5). Hierarchical

94. The word domain found in a relational database identifies,

(1). All the data contained in a suitable of the table is called the domain.
(2). another word used for the primary key of a table.
(3). A name used to identify the primary key and foreign key.
(4), a word used in connection with similar fields between two tables.
(5). A word used to refer to all the data in a table.

95. Given below is a table containing the data of employees of an organization and their overtime. Among the data in these two tables, the employee ID, name, address of the employees who have done overtime. What is the correct coding required to display the information such as salary, overtime amount?

Employee

Emp_No	Name	Address	Section	Position	Gender	Salary

Jude Kathurusingha

සියලුම හිමිකම් ඇවිරිණි. / All Right Reserved

1	Kamal	Kandy	Account	Manager	Male	32000
2	Amali	Colombo	Sales	Clark	Female	25000
3	Perera	Kandy	Account	Clark	Male	45000
4	Herath	Colombo	Account	Sales Man	Male	27500
5	Thilaka	Kandy	Sales	Sales Man	Female	19850
6	Niwanthi	Kandy	Account	Computer Op	Female	29500
7	Fernando	Mathara	Account	Supervisor	Male	47500

Overtime

Emp_No	Date	OTHours
1	2016-08-02	2
2	2016-08-03	10
1	2016-08-03	2
3	2016-08-03	4
1	2016-08-04	2

(1) SELECT Employee.Emp_No, Employee.Name, Employee.Address, Employee.5alary,Overtime.O THours FROM Employee INNER JOIN Overtime ON Emp_No= Emp_No

(2), SELECT Employee.Emp_No,Employee.Name,Employee.Address,Employee.5alary,Overtime.O THours FROM Employee INNER JOIN Overtime ONEmployee.Emp_No = Overtime.Emp_No

(3) SELECT Emp_No, Name, Address, Salary, OTHours FROM Employee INNER JOIN Overtime ON Employee.Emp_No=Overtime.Emp_No.

(4). SELECT Employee.Emp_No,Employee.Name, Employee Address, Employee.Salary FROM Employee INNER JOIN Overtime ON Employee.Emp_No = Overtime.Emp_No

(S). SELECT Employee.Emp_No,Employee.Name, Employee.Address, Employee.Salary,Overtime.OTHours FROM Employee OUTER JOIN Overtime ON Employee.Emp_No Overtime.Emp_No

96 to 90 Use the table below to answer the questions
Student(Number, Name, Address)
Fees (StNo, Date, Amount)

96, which statement about this table relation is not correct?

Jude Kathurusingha

සියලුම හිමිකම් ඇවිරිණි. / All Right Reserved

(1). the above tabular relation is first normalized.
(2). the above table relation is not first normalized.
(3). There are 3 Field Names in Student.
(4) A one-to-many relationship can exist between the student table and the Fees table.
(5). The Number field in the student table can be a primary.

97. Choose the correct statement regarding the above tables.
(1). Number field in student table as primary key and StNo field in fees table as foreign key can be used
(2). The Number field of the Student table cannot be used as the primary key.
(3). The StNo field in the Fees table can be used as the primary key.
(4). the number of sub-columns in the Student table cannot be changed.
(5). There is a many-many relationship between the two tables.

98. The existence of Zero Normalization can be indicated by the circle given below In case?
(1) After first calibration
(2) After second calibration After modification
(3). Third standard
(4) After undergoing the fourth standard
(5). an opportunity that exists without undergoing any standardization

99 What is called a partial dependency?
(1) Having to use more than one field (Field) in the table to distinguish The records contained in a table from others (Composite Key).
(2) A key Used to establish a relationship between two tables is a name.
(3), a section contained in a database management system.
(4), a sub-characteristic of a database management system.
(5). none of the above.

100. Study the figure below.

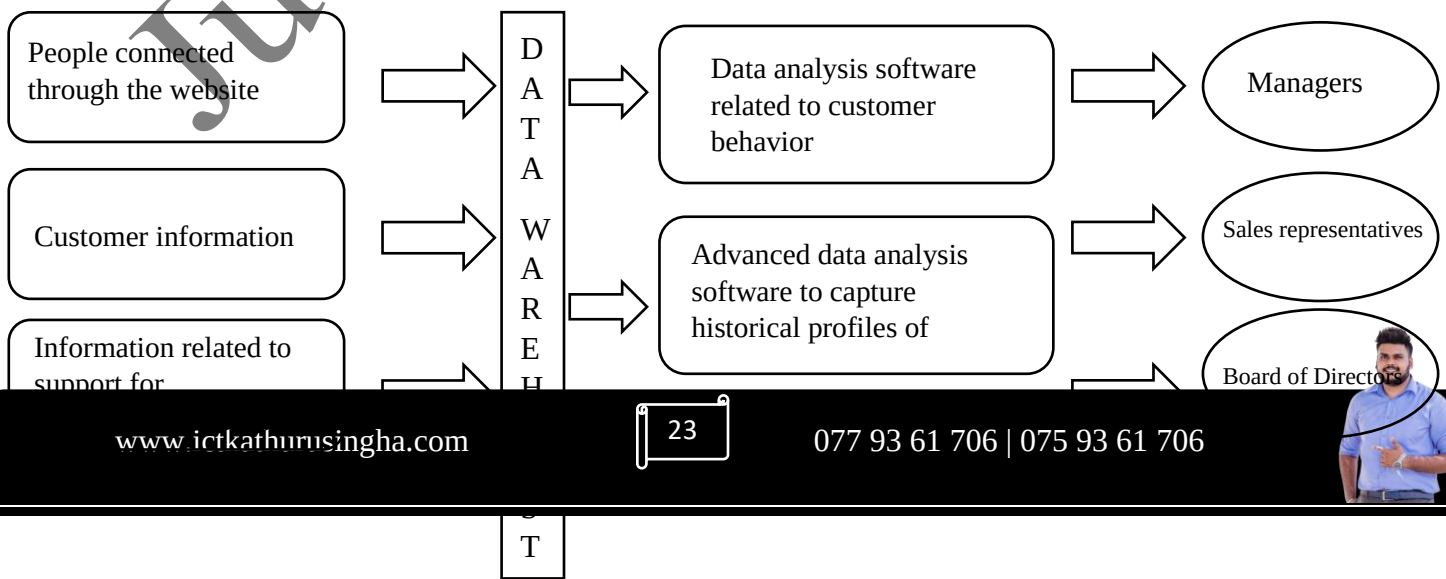

Jude Kathurusingha

සියලුම හිමිකම් ඇවිරිණි. / All Right Reserved

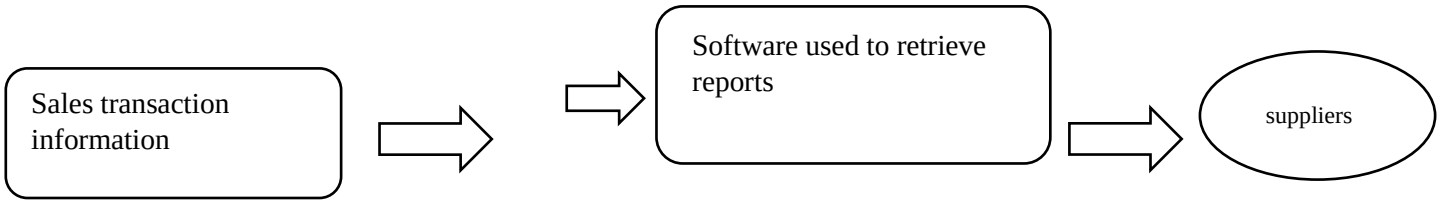

Above is a diagram related to data mining. Which statement is correct Regarding data mining?
(1). Data files that provide historical data.
(2). Daily analysis and acquisition of data in the database
(3). records obtained from a database
(4). using historical data in a database to identify business transaction patterns and Analyzing birth,
(5).none of the above.

101. Which subject shows the correct connection logic procedure in relation to the following physical connection matrix?

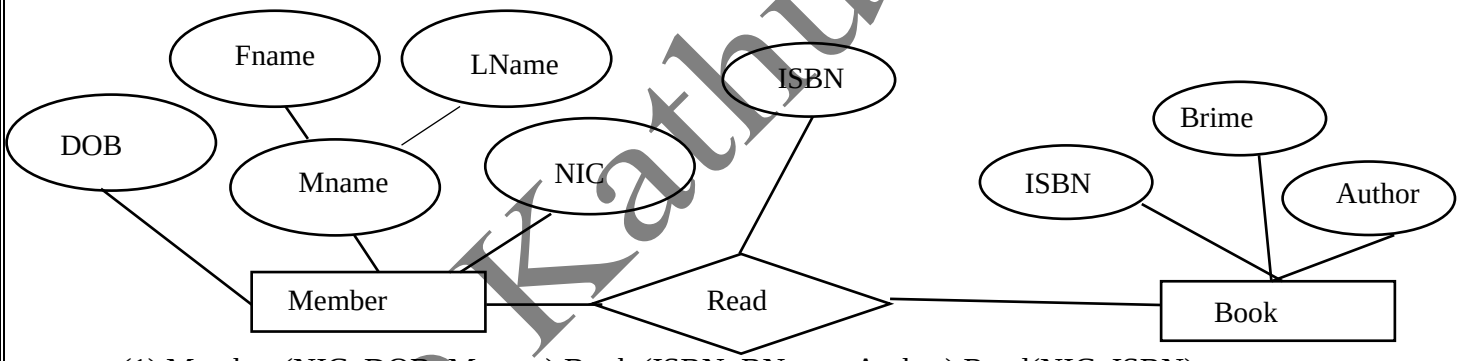

(1) Member (NIC, DOB, Mname) Book (ISBN, BName, Author) Read(NIC, ISBN)
(2). Member(NIC, DOB, Fnarne, Lname) Book(ISBN,Bname,Author,Hours) Read (NIC, ISBN)
(3). Member (NIC, DOB, Fname, LName,Hours) Books (ISBN, BName,Author) Read(NIC,ISBN)
(4). Member(NIC, DOB, Fname, Lname) Book(ISBN, BName, Author) Read(NIC,ISBN,Hours)
(5). Member(NIC, DOB, MName, Hours) Book(ISBN,BName, Author) Read(NIC, ISBN)

102 Consider the following statements about the very physical relationship Chart.
A –MName is a derived attribute.
B – Multiplicity between entities can be expressed as many-to-many.
C. – "Hours are the primary key to connectivity.
Which of the above statements is/are true?
(1). A only (2). B only (3). A and B only.
(4). B and C only (5). A,B and C only

Jude Kathurusingha

සියලුම හිමිකම් ඇවිරිණි. / All Right Reserved

Jude Kathurusingha